Infosys - Test 5

Total No. of Questions: 59 **Total Marks: 73**

SECTION 1: Reasoning Ability

Q1 (1 Marks)

Given below is a question followed by two statements numbered I and II . You have to decide whether the data provided in the statements are sufficient to answer the question. Read both the statements and give your answer. How much distance does the man cover driving his car?

Statement I: If he drives the car 3 km/h faster, then he would take total 2 hours less time.

Statement II: If he drives the car 3 km/h slower, then he would take total 3 hours more time.

A. EACH statement ALONE is sufficient.

B. Statement 1 ALONE sufficient, but Statement 2 ALONE is not sufficient to answer the question

C. BOTH statements TOGETHER are sufficient to answer, but NEITHER statement ALONE is sufficient.

D. Statement 2 ALONE is sufficient, but Statement 1 ALONE is not sufficient to answer the question.

Q2 (1 Marks)

Find the odd man out among the following the below given numbers

8405, 7213, 9364, 4297, 9819

A. 4297

B. 7213

C. 8405

D. 9364

Q3 (1 Marks)

Six friends – A, B, C, D, E and F are sitting in a row facing south, E is sitting third to the right of C who is sitting at extreme left end. A is sitting second to the right of E. B is sitting between A and E. F is sitting third to the left of B. Which of the following statements is true? (Choose one solution)

A. F is fourth to the right of B

B. C is sitting fifth to the left of B

C. A is sitting fifth to the left of F

D. E is sitting adjacent to D

Q4 (1 Marks)

If 3 + 4 = 5 & 5 + 12 = 13 then 7 + 24 =?

A. 25

B. 55

C. 35

D. 45

Q5 (1 Marks)

In a pie chart observation A covers 17% of the area, then the central angle of the observation A is _____

A. 62 degree

B. 61.02 degree

C. 61.2 degree

D. 60.2 degree

Q6 (1 Marks)

The three-digit smallest number divisible by 4 is ____

A. 100

B. 200

C. 400

D. 300

Q7 (1 Marks)

What comes next in the given number series? 250, 25, 2.5, 0.25, 0.025

A. 0.000025

B. 0.0025

C. 0.00205

D. 0.00025

Q8 (1 Marks)

What two signs in the following equation need to be interchanged so that the equation will be mathematically correct? 5 + 3 x 8 – 12 ÷4 = 3

A. – and +

B. x and ÷

C. ÷ and –

D. None of these

Q9 (1 Marks)

What will be next term in the series?

2Z3Y, 4X5W, 6V7U, ?

A. 8R9S

B. 8T9S

C. 8G9H

D. 8E9F

Q10 (1 Marks)

Eleven friends M, N, O, P, Q, R, S, T, U, V and W are sitting in the first row of the stadium watching a cricket match.

T is to the immediate left of P and third to the right of U.

V is the immediate neighbour of M and N and third to the left of S.

M is the second to the right of Q, who is at one of the ends.

R is sitting next to the right of P and P is second to the right of O.

Who is sitting in the center of the row?

A. N

B. O

C. S

D. U

Q11 (1 Marks)

Eleven friends M, N, O, P, Q, R, S, T, U, V and W are sitting in the first row of the stadium watching a cricket match.

T is to the immediate left of P and third to the right of U.

V is the immediate neighbour of M and N and third to the left of S.

M is the second to the right of Q, who is at one of the ends.

R is sitting next to the right of P and P is second to the right of O.

Which of the following people are sitting to the right of S?

A. OTPQ

B. OTPR

C. UNVM

D. UOTPR

Q12 (1 Marks)

The bar graph given below shows the foreign exchange reserves of a country (in million US $) from 1991 - 1992 to 1998 - 1999.

Foreign Exchange Reserves of a Country. (in million US $)

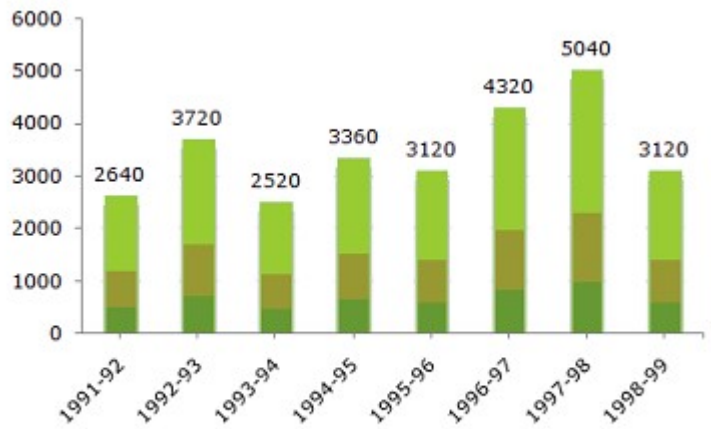

The ratio of the number of years, in which the foreign exchange reserves are above the average reserves, to those in which the reserves are below the average reserves is?

A. 2:6

B. 3:4

C. 3:5

D. 4:4

Q13 (1 Marks)

In each of the questions below are given two statements followed by three conclusions numbered I, II and III. You have to take the given statements to be true even if they seem to beat variance with commonly known facts. Read ail the conclusions and then decide which of the given conclusions logically follows from the given statements disregarding commonly known facts.

Statements: a. No room is tiger. b. All tigers are goats. Conclusions:

I. Some goats are rooms. II. All goats are rooms. III. Some goats are tigers.

A. None follow

B. Only either II or III follows

C. Only either I or III follows

D. Only III follows

Q14 (1 Marks)

Given below is a question followed by two statements numbered I and II . You have to decide whether the date provided in the statements are sufficient to answer the question. Read both the statements and give your answer. At 10% per annum a sum of money at compound interest becomes rupees 1331. What is the time duration?

Statement I : At 15% per annum at the end of 2 years, the same sum of money at compound interest compounded annually becomes rupees 1600.25

Statement II : At 5% per annum simple interest the same sum of money becomes rupees 1452 at the end of 4 years.

A. EACH statement ALONE is sufficient.

B. Statement 1 ALONE sufficient, but Statement 2 ALONE is not sufficient to answer the question

C. BOTH statements TOGETHER are sufficient to answer, but NEITHER statement ALONE is sufficient.

D. Statement 2 ALONE is sufficient, but Statement 1 ALONE is not sufficient to answer the question

Q15 (1 Marks)

Directions: The problem has a question followed by two statements which are marked I and II. Use the data given in A and B together or separately and mark.

What is the area of triangle ABC?

Statements:

a. AB = 5 cm, BC = 6 cm, AC = 11 cm

b. Angle C < 90 degrees.

A. Statement (a) ALONE is sufficient, but statement (b) alone is not sufficient to answer the question asked.

B. Statement (b) ALONE is sufficient, but statement (a) alone is not sufficient to answer the question asked.

C. BOTH statements (a) and (b) TOGETHER are sufficient to answer the question asked, but NEITHER statement ALONE is sufficient to answer the question asked.

D. EACH statement ALONE is sufficient to answer the question asked.

E. Statements (a) and (b) TOGETHER are NOT sufficient to answer the question asked, and additional data specific to the problem are needed.

SECTION 2: Mathematical Ability

Q1 (1 Marks)

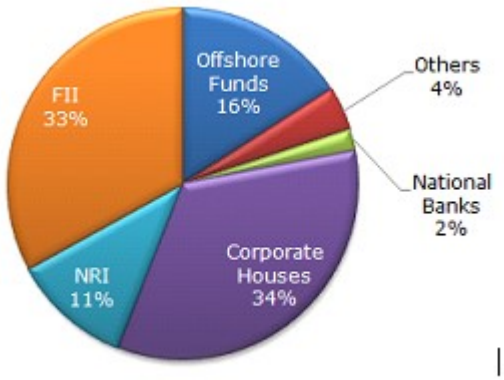

The following pie chart shows the number of subscriptions generated for India Bonds from different categories of investors.

If the investment by NRI's are Rs 4,000 crore, then the investments by corporate houses and FII's together is:

A. 24,000 crore

B. 24,363 crore

C. 25,423 crore

D. 25,643 crore

Q2 (1 Marks)

The following graph shows the engine lifetime (in percentage) in according to tis speed. If an engine, usually driven at a speed of 60 miles per hours. Had a lifespan of 30,000 miles, then what will be the lifespan of an engine (in miles) which is usually driven at a speed of 30 miles per hour?

Speed (Miles per hour)	Engine Lifetime (In Percentage)
20	400%
30	330%
40	220%
50	150%
60	100%
70	75%

A. 88,000 miles

B. 90,000 miles

C. 85,000 miles

D. 99,000 miles

Q3 (1 Marks)

Given below is a question followed by two statements numbered I and II. You have to decide whether the data provided in the statements are sufficient to answer the question. Read both the statements and give your answer.

What is the value of “X”?

Statement I: When square of 15 is added to cube of “X”, the answer so obtained is 252.

Statement II: When square of “X” is added to 252, the answer so obtained is 261.

A. EACH statement ALONE is sufficient.

B. Statement 1 ALONE sufficient, but Statement 2 ALONE is not sufficient to answer the question

C. BOTH statements TOGETHER are sufficient to answer, but NEITHER statement ALONE is sufficient.

D. Statement 2 ALONE is sufficient, but Statement 1 ALONE is not sufficient to answer the question.

Q4 (1 Marks)

Given below is a question followed by two statements numbered I and II. You have to decide whether the data provided in the statements are sufficient to answer the question. Read both the statements and give your answer.

C alone can complete a work in 15 days then in how many days A, B, and C together will complete the work. If they start simultaneously?

Statement I: If A and B start simultaneously then they together can complete the work in 5.625 days.

Statement II: If B and C start simultaneously then they together can complete the work in 9 days.

A. EACH statement ALONE is sufficient.

B. Statement 1 ALONE sufficient, but Statement 2 ALONE is not sufficient to answer the question

C. BOTH statements TOGETHER are sufficient to answer, but NEITHER statement ALONE is sufficient.

D. Statement 2 ALONE is sufficient, but Statement 1 ALONE is not sufficient to answer the question

Q5 (1 Marks)

Natwarlal was a smart thief who decided to rob the three computers in a computer center, namely, Tejas, Prithvi and Vayu. He robbed the computers of one of their peripherals, attacking one computer each in every month of the first quarter of the year. Natwarlal had only three tools i.e., a screwdriver, pliers and a wire cutter. Each month he used a different tool. Finally, his booty comprised a printer, a keyboard and a monitor and he was able to build his own computer system. In January, Natwarlal robbed Prithvi. He did not use the wire cutter in that month. Poor Vayu lost its keyboard when pliers did their trick. Monitor was susceptible only to the edge of the wirecutter. March was the unlucky month for Tejas.

Which tool was used in Tejas?

A. Screwdriver

B. Pliers

C. Wire cutter

D. Can't be determined

Q6 (1 Marks)

Question: What will be the total weight of 10 poles, each of the same weight?

Statements:

I. One-fourth of the weight of each pole is 5 kg.

II. The total weight of three poles is 20 kilograms more than the total weight of two poles.

A. I alone is sufficient while II alone is not sufficient

B. II alone is sufficient while I alone is not sufficient

C. Either I or II is sufficient

D. Neither I nor II is sufficient

Q7 (1 Marks)

Natwarlal was a smart thief who decided to rob the three computers in a computer center, namely, Tejas, Prithvi and Vayu. He robbed the computers of one of their peripherals, attacking one computer each in every month of the first quarter of the year. Natwarlal had only three tools i.e., a screwdriver, pliers and a wire cutter. Each month he used a different tool. Finally, his booty comprised a printer, a keyboard and a monitor and he was able to build his own computer system. In January, Natwarlal robbed Prithvi. He did not use the wire cutter in that month. Poor Vayu lost its keyboard when pliers did their trick. Monitor was susceptible only to the edge of the wirecutter. March was the unlucky month for Tejas.

In which month did Natwarlal acquire the keyboard?

A. January

B. February

C. March

D. Can't be determined

Q8 (1 Marks)

Four prisoners escape from a prison. The prisoners, Mr East, Mr West, Mr South, Mr North head towards different directions after escaping.

The following information of their escape was supplied:

The escape routes were The North Road, South Road, East Road and West Road.

None of the prisoners took the road which was their namesake.

Mr.East did not take the South Road

Mr.West did not the South Road.

The West Road was not taken by Mr.East

What road did Mr. North take to make their escape?

A. West

B. South

C. North

D. East

Q9 (1 Marks)

Three consecutive integers X, Y and Z are not necessarily in that order. Which is the highest number?

I. The average of X and Y is Z.

II. X is greater than Y.

A. EACH statement ALONE is sufficient

B. Statement 1 ALONE sufficient, but Statement 2 ALONE is not sufficient to answer the question

C. BOTH statements TOGETHER are sufficient to answer, but NEITHER statement ALONE is sufficient.

D. Statement 2 ALONE is sufficient, but Statement 1 ALONE is not sufficient to answer the question.

Q10 (1 Marks)

Directions: The question below has a few statements, followed by four conclusions every given statements as true, even if it does not conform to the well known facts.

Statements:

1. Some birds are mangoes.

2. No duck is a parrot.

3. All mangoes are ducks.

Conclusion:

I. Some birds are duck

II. Some ducks are mangoes.

III. No parrot is duck.

IV. Some birds are not parrots

A. Only I, II, and III follow

B. Only II, II, and IV follow

C. Only I, III, and IV follow

D. All follow

SECTION 3: Verbal Ability Test

Q1 (1 Marks)

In this question, a statement has been followed by two arguments numbered I and II. You have to decide which of the arguments is strong.

Question1: Should school uniforms be mandatory in all schools?

Arguments:

I: Yes, school uniforms create a sense of equality among students.

II: No, school uniforms limit students' freedom of expression.

A. Only I is strong.

B. Only II is strong.

C. Both I and II are strong.

D. Neither I nor II is strong.

Q2 (1 Marks)

Should the government ban single-use plastic?

Arguments:

I: Yes, single-use plastic is a major contributor to environmental pollution.

II: No, single-use plastic is convenient and widely used by people.

A. Only I is strong.

B. Only II is strong

C. Both I and II are strong

D. Neither I nor II is strong.

Q3 (1 Marks)

Should physical education be made compulsory in schools?

Arguments:

I: Yes, it promotes physical fitness and overall well-being among students.

II: No, it reduces the time available for academic subjects.

A. Only I is strong

B. Only II is strong.

C. Both I and II are strong

D. Neither I nor II is strong.

Q4 (1 Marks)

Read the sentence to find out whether there is any grammatical error in it. The error, if any, will be in one part of the sentence. The letter of that part is the answer. If there is no error, the answer is 'D'. (Ignore - the errors of punctuation,if any) : (A) Ganguly is one of the finest batsmen/ (B) that India have produced/ (C) over the decades./ (D) No error

A. A

B. B

C. C

D. D

Q5 (1 Marks)

The error, if any, will be in one part of the sentence. The letter of that part is the answer. If there is no error, the answer is 'D'. (Ignore - the errors of punctuation, if any) : (A) At the end of the year/(B) every student who had done adequate work/(C) was automatically promoted./(D) No error.

A. A

B. B

C. C

D. D) No error

Q6 (1 Marks)

Read the sentence to find out whether there is any grammatical error in it. The error, if any, will be in one part of the sentence. The letter of that part is the answer. If there is no error, the answer is 'D'. (Ignore - the errors of punctuation, if any) : (A) One of the members/(B) expressed doubt if/(C) the Minister was an athiest./(D) No error.

A. A

B. B

C. C

D. D) No error

Q7 (1 Marks)

In the question a part of the sentence is bolded and italicised. Alternatives to the italicised part is given which may improve the construction of the sentence. Select the correct alternative.

To get one's name in the Rowland Ward's book of hunting records was the ***hot*** ambition of every serious hunter.

A. extreme

B. burning

C. reluctant

D. No improvement needed

Q8 (1 Marks)

In the question a part of the sentence is bolded and italicised. Alternatives to the italicised part is given which may improve the construction of the sentence. Select the correct alternative.

Whatever to our other problems, we have no ***shortcoming*** to cheap labour in India.

A. default

B. deficit

C. scarcity

D. No improvement needed

Q9 (1 Marks)

He has ate his lunch already. Correct the sentence.

A. He has eaten his lunch already.

B. He ate his lunch already.

C. He eats his lunch already.

D. He has ate his lunch already.

Q10 (1 Marks)

Select the correct option that fills the blank to make the sentence meaningfully complete.

The ruling party will have to put its own house …… order.

A. on

B. in

C. to

D. into

Q11 (1 Marks)

Select the correct option that fills the blank to make the sentence meaningfully complete.

Once he has signed the agreement, he won't be able to …..

A. back up

B. back in

C. back at

D. back out

Q12 (1 Marks)

Select the correct option that fills the blank to make the sentence meaningfully complete.

In school many of us never realised the importance that grammar would …. in later life.

A. figure

B. portrary

C. play

D. exercise

Q13 (1 Marks)

Climate change is one of the most pressing issues of our time, and transitioning to renewable energy is a key solution to address it. Renewable energy sources, such as solar panels, wind turbines, and hydroelectric plants, harness natural resources that are replenished over time. Unlike fossil fuels, they do not emit greenhouse gases, which are a major contributor to global warming.

To reduce pollution, adopting cleaner technologies, protecting forests from deforestation, and limiting the use of plastic are essential steps. Renewable energy, particularly wind and solar power, is considered sustainable because it is not only renewable but also eco-friendly and increasingly cost-effective over time.

However, renewable energy is not without its challenges. The high initial costs of installation, intermittent supply dependent on weather conditions, and the need for advanced technologies to store and distribute energy efficiently are some of the drawbacks. Despite these limitations, the transition to renewable energy is crucial for creating a sustainable future and mitigating the impacts of climate change.

What is the main purpose of the article?

A. To inform readers about climate change.

B. To argue for renewable energy.

C. To criticize fossil fuels

D. To promote sustainable living.

Q14 (1 Marks)

Climate change is one of the most pressing issues of our time, and transitioning to renewable energy is a key solution to address it. Renewable energy sources, such as solar panels, wind turbines, and hydroelectric plants, harness natural resources that are replenished over time. Unlike fossil fuels, they do not emit greenhouse gases, which are a major contributor to global warming.

To reduce pollution, adopting cleaner technologies, protecting forests from deforestation, and limiting the use of plastic are essential steps. Renewable energy, particularly wind and solar power, is considered sustainable because it is not only renewable but also eco-friendly and increasingly cost-effective over time.

However, renewable energy is not without its challenges. The high initial costs of installation, intermittent supply dependent on weather conditions, and the need for advanced technologies to store and distribute energy efficiently are some of the drawbacks. Despite these limitations, the transition to renewable energy is crucial for creating a sustainable future and mitigating the impacts of climate change.

Which example illustrates renewable energy?

A. Solar panels

B. Coal power plants

C. Diesel engines

D. Gas heaters

Q15 (1 Marks)

Climate change is one of the most pressing issues of our time, and transitioning to renewable energy is a key solution to address it. Renewable energy sources, such as solar panels, wind turbines, and hydroelectric plants, harness natural resources that are replenished over time. Unlike fossil fuels, they do not emit greenhouse gases, which are a major contributor to global warming.

To reduce pollution, adopting cleaner technologies, protecting forests from deforestation, and limiting the use of plastic are essential steps. Renewable energy, particularly wind and solar power, is considered sustainable because it is not only renewable but also eco-friendly and increasingly cost-effective over time.

However, renewable energy is not without its challenges. The high initial costs of installation, intermittent supply dependent on weather conditions, and the need for advanced technologies to store and distribute energy efficiently are some of the drawbacks. Despite these limitations, the transition to renewable energy is crucial for creating a sustainable future and mitigating the impacts of climate change.

What does the author suggest to reduce pollution?

A. Adopting cleaner technologies

B. Reducing deforestation

C. Limiting plastic usage

D. All of the above

Q16 (1 Marks)

Climate change is one of the most pressing issues of our time, and transitioning to renewable energy is a key solution to address it. Renewable energy sources, such as solar panels, wind turbines, and hydroelectric plants, harness natural resources that are replenished over time. Unlike fossil fuels, they do not emit greenhouse gases, which are a major contributor to global warming.

To reduce pollution, adopting cleaner technologies, protecting forests from deforestation, and limiting the use of plastic are essential steps. Renewable energy, particularly wind and solar power, is considered sustainable because it is not only renewable but also eco-friendly and increasingly cost-effective over time.

However, renewable energy is not without its challenges. The high initial costs of installation, intermittent supply dependent on weather conditions, and the need for advanced technologies to store and distribute energy efficiently are some of the drawbacks. Despite these limitations, the transition to renewable energy is crucial for creating a sustainable future and mitigating the impacts of climate change.

Why is wind energy considered sustainable?

A. It is renewable.

B. It does not emit greenhouse gases.

C. It is cost-effective in the long run.

D. All of the above

Q17 (1 Marks)

Climate change is one of the most pressing issues of our time, and transitioning to renewable energy is a key solution to address it. Renewable energy sources, such as solar panels, wind turbines, and hydroelectric plants, harness natural resources that are replenished over time. Unlike fossil fuels, they do not emit greenhouse gases, which are a major contributor to global warming.

To reduce pollution, adopting cleaner technologies, protecting forests from deforestation, and limiting the use of plastic are essential steps. Renewable energy, particularly wind and solar power, is considered sustainable because it is not only renewable but also eco-friendly and increasingly cost-effective over time.

However, renewable energy is not without its challenges. The high initial costs of installation, intermittent supply dependent on weather conditions, and the need for advanced technologies to store and distribute energy efficiently are some of the drawbacks. Despite these limitations, the transition to renewable energy is crucial for creating a sustainable future and mitigating the impacts of climate change.

What is one drawback of renewable energy mentioned in the article?

A. High initial costs

B. Intermittent supply

C. Requires technological advancements

D. All of the above

Q18 (1 Marks)

Antonym of 'FICKLE'.

A. Courageous

B. Sincere

C. Steadfast

D. Humble

Q19 (1 Marks)

Synonym of 'CORPULENT'.

A. Lean

B. Gaunt

C. Emaciated

D. Obese

Q20 (1 Marks)

Synonym of 'EMBEZZLE'.

A. Misappropriate

B. Balance

C. Remunerate

D. Clear

SECTION 4: Pseudocodes

Q1 (2 Marks)

What will be the output of the following pseudocode?

```
Integer res
String str
Set str = "New”
res = stringLength(str)
display (res^1)
```

A. 0

B. 1

C. 2

D. 3

Q2 (2 Marks)

```
int a=2, b =4, m
m=(a>b)? a:b:
while (1) {
if (m% a = = 0 &&m % b = = 0)
{
print m:
break;
++m;
}
```

A. It displays the LCM of 2 and 4

B. It displays the HCF of 2 and 4

C. It dispays the maximum number between 2 and 4

D. It displays the minimum number between 2 and 4

Q3 (2 Marks)

Predict the output of the following pseudo code

Integer x = 196, y = 85;

Integer z;

y + = 1

x = 10

z = x-y

print (z);

A. -76

B. 77

C. -67

D. 85

Q4 (2 Marks)

What is the output of the following pseudocode?

```
Integer x = 5, y = 3, z = 0
for (i = 1 to 3)
        if (x > y)
                z = z + x
        else
                z = z + y
        End if
y = y + 1
end for
print z
```

A. 51

B. 15

C. 13

D. 21

Q5 (2 Marks)

Find the output of the following pseudo code (take number = 6)

```
Read number
k=2
i=2
while i<=number
k=k*i
i=i+1
end while
print k
```

A. 1550

B. 1440

C. 1700

D. 1340

SECTION 5: Puzzle Solving Test

Q1 (2 Marks)

What number comes inside the circle?



A. 5

B. 6

C. 4

D. 3

Q2 (2 Marks)

Find the missing number in the grid given below.

8	38	5
100	?	2
50	248	5

A. 298

B. 98

C. 198

D. 108

Q3 (2 Marks)

Find the values of A and B in the third figure. Assume the third figure works in the same way as the other two.

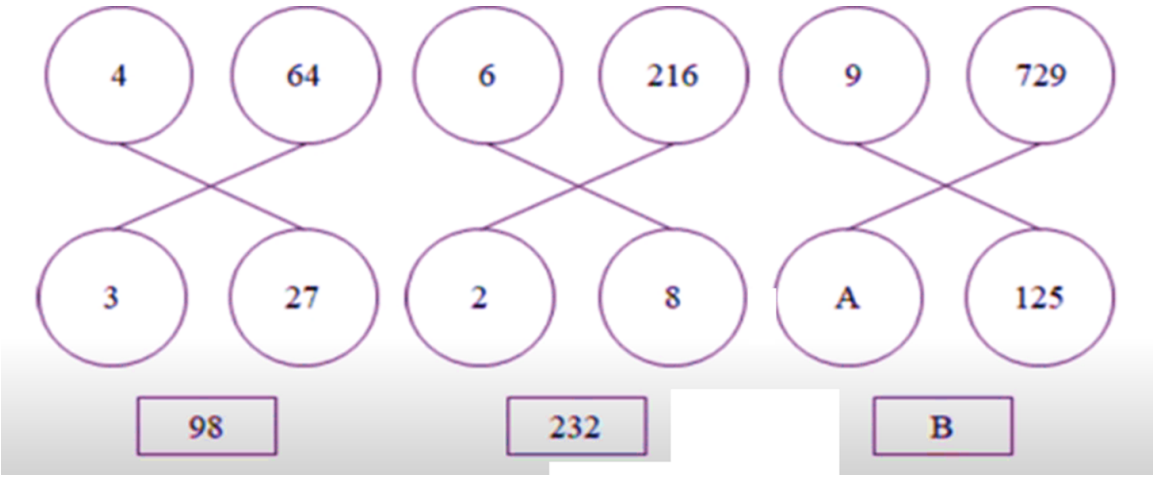

A. A = 5, B = 868

B. A = 3, B = 868

C. A = 5, B = 38

D. A = 3, B = 38

Q4 (2 Marks)

Find out the missing number in the grid given below

3	2	11
?	6	13
3	5	23

A. 7

B. 11

C. 2

D. 1

SECTION 6: English Grammer Test

Q1 (2 Marks)

Effective communication is (1) _____ for building strong relationships. Listening actively and responding (2) _____ can prevent misunderstandings. It is important to (3) _____ your ideas clearly and respectfully. Nonverbal cues such as eye contact and body language (4) _____ to the message you convey. Practicing these skills regularly can (5) _____ personal and professional relationships.

From the given below options which fits blank (1).

A. irrelevant

B. crucial

C. unnecessary

D. optional

Q2 (2 Marks)

Effective communication is (1) _____ for building strong relationships. Listening actively and responding (2) _____ can prevent misunderstandings. It is important to (3) _____ your ideas clearly and respectfully. Nonverbal cues such as eye contact and body language (4) _____ to the message you convey. Practicing these skills regularly can (5) _____ personal and professional relationships.

From the given below options which fits blank (2).

A. politely

B. rudely

C. carelessly

D. vaguely

Q3 (2 Marks)

Effective communication is (1) _____ for building strong relationships. Listening actively and responding (2) _____ can prevent misunderstandings. It is important to (3) _____ your ideas clearly and respectfully. Nonverbal cues such as eye contact and body language (4) _____ to the message you convey. Practicing these skills regularly can (5) _____ personal and professional relationships.

From the given below options which fits blank (3).

A. hide

B. express

C. distort

D. suppress

Q4 (2 Marks)

Effective communication is (1) _____ for building strong relationships. Listening actively and responding (2) _____ can prevent misunderstandings. It is important to (3) _____ your ideas clearly and respectfully. Nonverbal cues such as eye contact and body language (4) _____ to the message you convey. Practicing these skills regularly can (5) _____ personal and professional relationships.

From the given below options which fits blank (4).

A. contribute

B. confuse

C. detract

D. oppose

Q5 (2 Marks)

Effective communication is (1) _____ for building strong relationships. Listening actively and responding (2) _____ can prevent misunderstandings. It is important to (3) _____ your ideas clearly and respectfully. Nonverbal cues such as eye contact and body language (4) _____ to the message you convey. Practicing these skills regularly can (5) _____ personal and professional relationships.

From the given below options which fits blank (5).

A. damage

B. improve

C. harm

D. ignore